六年级下册数学圆柱与圆锥专项练习（30道）

1. 求表面积(高=2，r=3)(单位：厘米)

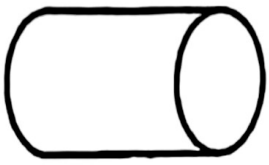

2. 计算下面图形的表面积。

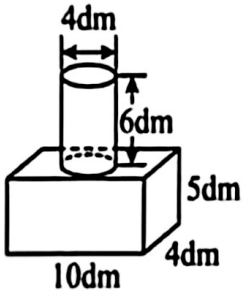

3. 求圆柱的表面积。（单位：厘米）

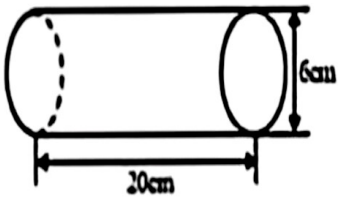

4. 下面是一个圆柱的展开图，求这个圆柱的表面积。（单位：厘米）

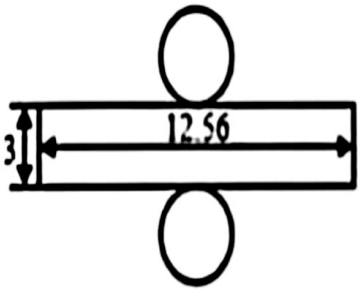

5. 求下面图形的表面积。

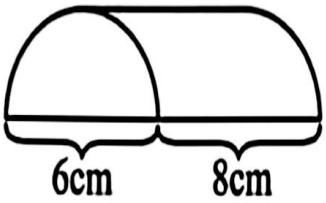

6. 计算下面组合图形的表面积。（单位：dm）

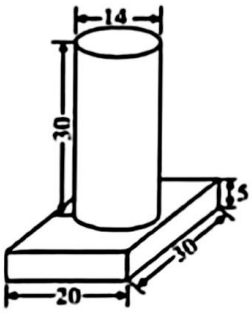

7. 下图钢管的体积。（单位：厘米）



8. 计算下面图形的体积。

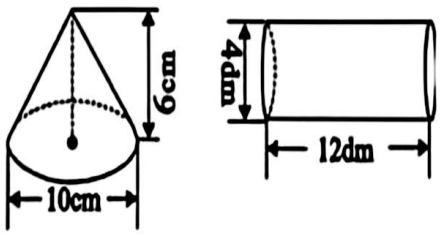

9. 求下面图形的表面积和体积。

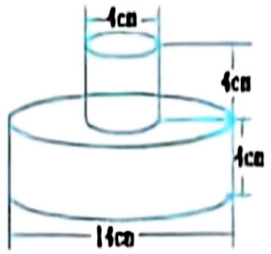

10. 求组合图形的体积。

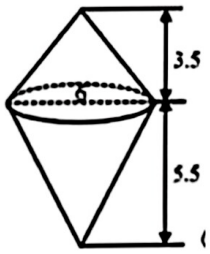
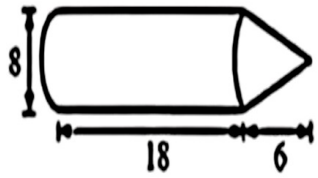
11. 求体积。（单位：厘米）